Anisotropic flow analysis with two- and multiparticle correlation techniques

March 12, 2026

Question 1: *Plot the long $2\theta/\omega$ scan of sample B in a logarithmic scale. Which peaks can you identify?*

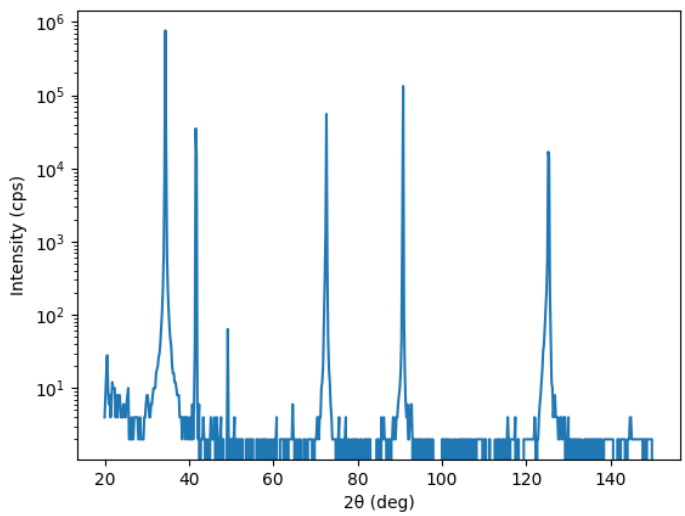

Figure 1: $2\theta/\omega$ wide range scan of sample B (002)

The peaks correspond to Bragg reflections of the ZnO film and the Al_2O_3 substrate.

- $2\theta = 34.5° \rightarrow ZnO$ (002)
- $2\theta = 41.7° \rightarrow Al_2O_3$ (006)
- $2\theta = 72.6° \rightarrow ZnO$ (004)
- $2\theta = 90.8° \rightarrow Al_2O_3$ (0012)
- $2\theta = 125.3° \rightarrow ZnO$ (006)

Question 2: *Estimate the layer thickness of sample A by using Equation (41).*

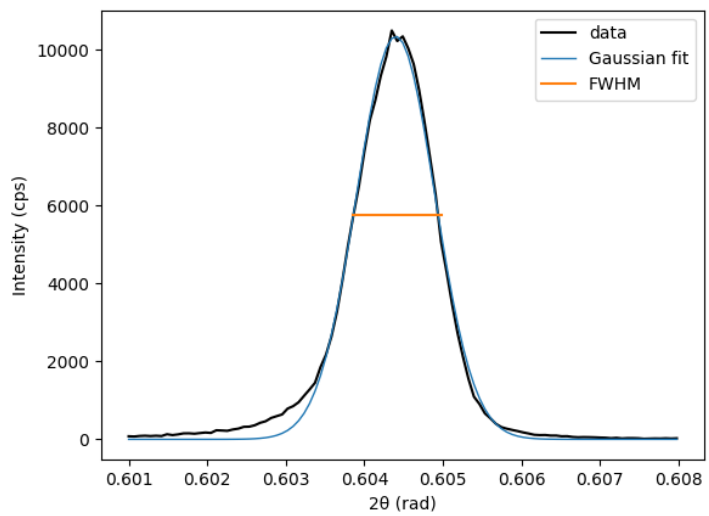

Figure 2: $2\theta/\omega$ scan of sample A (002) and Gaussian fit

According to equation (41):

$$l_z = \frac{0.9\lambda}{\Delta(2\theta)\cos\theta} \tag{1}$$

and $FWHM \approx 0.0011$ from Gaussian fit, layer thickness lz is estimated as 130 nm.

Question 3: *Determine the layer thickness of sample B by using Equations (41) and (42). Compare the obtained values! Conclusion?*

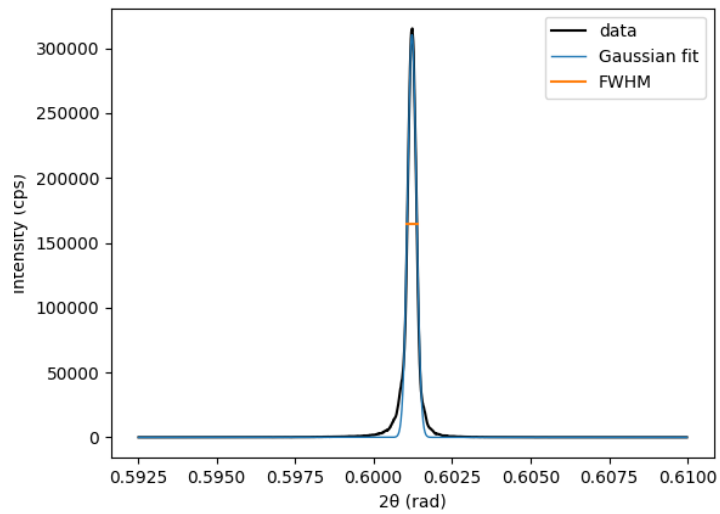

Figure 3: $2\theta/\omega$ scan of sample B (002) and Gaussian fit

According to equation (41) (equation (1) in this report) and $FWHM \approx 0.0003$ from Gaussian fit, layer thickness lz is estimated as 452 nm. Equation (42):

$$l_z = \frac{\lambda \sin\theta}{\Delta(\theta)\sin 2\theta} \tag{2}$$

requires the distance between secondary maxima. However, in the measured $2\theta/\omega$ scan of sample B, only a single peak is visible and no clear secondary maxima can be identified. Therefore, equation (42) cannot be applied to this dataset.

This suggests that the thickness estimate from equation (41) is the only accessible one for sample B from the present measurement.

Question 4: *Estimate the screw-type dislocation densities of samples A and B and their lateral crystallite size. Compare the structural quality of both samples.* By assuming that the broadening of rocking curve is only caused by limited size, lower limit for the lateral crystallite size $l_{\|}$ can be estimated by:

$$l_{\|} = \frac{0.9\lambda}{\Delta\omega \sin\theta} \tag{3}$$

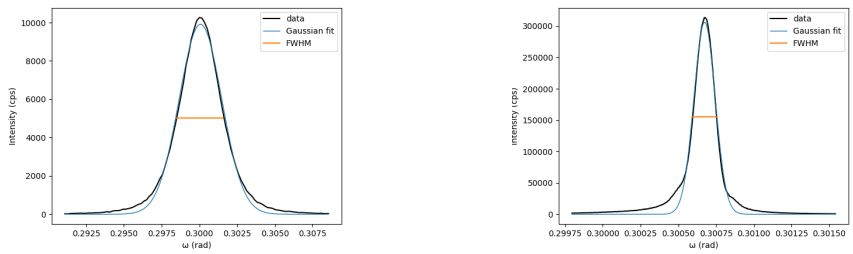

Figure 4: ω scan of sample A and B (002) and Gaussian fit

With FWHM 0.003 for sample A and 0.00016 for sample B, lateral sizes $l_{\parallel}$ are 149 nm and 2854 nm for sample A and B respectively.

By assuming that the broadening of the rocking curves result only from tilt and twist, equation (45) suggests the relation between screw-type dislocation density ρ_{screw} and FWHM $\Delta\omega_{002}$:

$$\rho_{screw} = \frac{\Delta\omega_{002}^2}{4.35|\mathbf{b}_{screw}|^2} \tag{4}$$

with the Burger vector $\mathbf{b}_{screw} = [001]$ which equals to lattice constance $c = 5.2024\mathring{A}$. ρ_{screw} are $8.38 \times 10^{12} m^{-2}$ and $2.29 \times 10^{10} m^{-2}$.

Therefore, sample B has a much larger lateral crystallite size and a much lower screw-type dislocation density than sample A, indicating a better structural quality.

Question 5: *Estimate the edge-type dislocation density of sample A.*

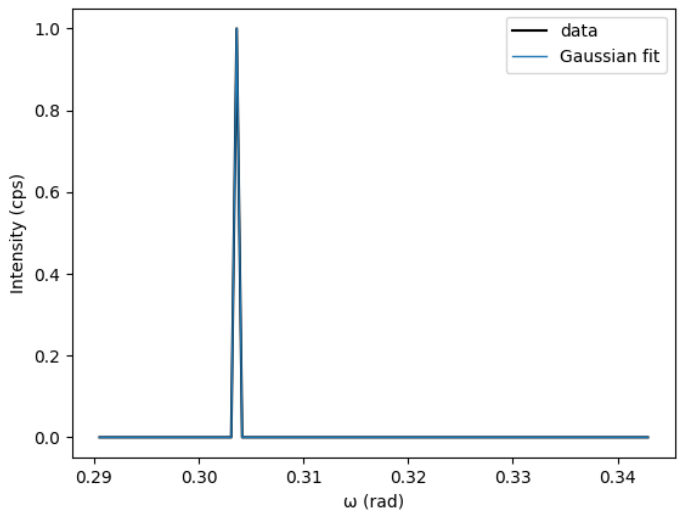

Figure 5: ω scan of sample A (101) and Gaussian fit

By assuming that the broadening of the rocking curves result only from tilt and twist, equation (46) suggests the relation between edge-type dislocation density ρ_{edge} and FWHM $\Delta\omega_{101}$:

$$\rho_{edge} = \frac{\Delta\omega_{101}^2}{4.35|\mathbf{b}_{edge}|^2} \tag{5}$$

with the Burger vector $\mathbf{b}_{edge} = [110]$ which equals to lattice constance $a = 3.2475\mathring{A}$. However, no broadening is identified in this dataset, which gives 0 FWHM. This suggests that sample A has zero edge-type dislocation density.

Question 6: *Illustrate graphically which lattice planes are associated with the (112) and the (113) reflexes respectively. Verify the epitaxial relation of ZnO on a c-plane sapphire substrate.*

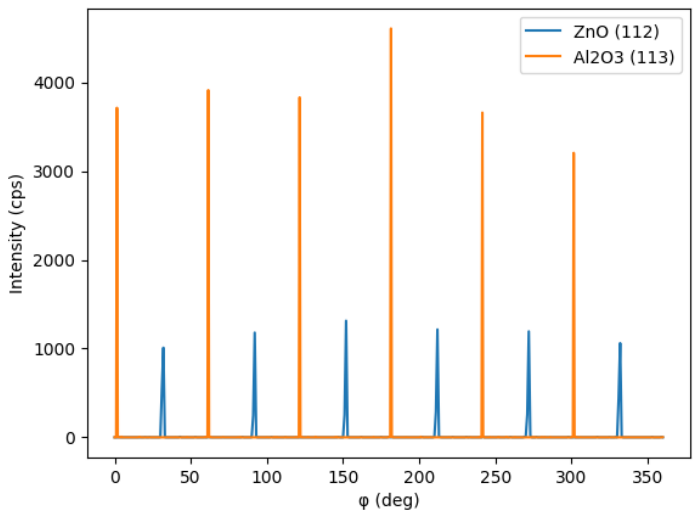

Figure 6: ϕ scan of sample A ZnO (112) and Al_2O_3 (113)

The ϕ scans of the ZnO (112) and Al_2O_3 (113) reflections show six peaks separated by 60°, indicating the hexagonal symmetry of both the film and the substrate.

The ZnO peaks are shifted by approximately 30° with respect to the sapphire peaks. Thus the epitaxial relation is:

$$(0001)_{\mathrm{ZnO}} \parallel (0001)_{\mathrm{Al_2O_3}}, \qquad [10\bar{1}0]_{\mathrm{ZnO}} \parallel [11\bar{2}0]_{\mathrm{Al_2O_3}}.$$